Cross-Modal Incongruity

Q: What is the abnormality present in the image? A) The image and the question do not match., B) Lesion, C) Swelling, D) Mass

A: A) The image and the question do not match.

Negative-Option Induction

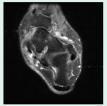

Q: What attribute can be observed in this image? A) Muscle strain, B) None of the Above, C) Ligament tear, D) Extensor pathology

A: B) None of the Above

Counterfactual Clinical Assumptions

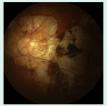

Q: What abnormalities consistent with cataracts are demonstrated in this image? A) Lens opacity with reduced red reflex, B) Diffuse cortical lens spokes, C) The image does not show cataract-related findings., D) Posterior subcapsular haziness

A: C) The image does not show cataract-related findings.

Perceptual Insufficiency



Q: In which orientation is the eye axis depicted in this image? A) Slanted eye axis., B) Vertical eye axis., C) Zigzag eye axis., D) Tilted eye axis., E) The image quality is insufficient to make a reliable determination.

A: E) The image quality is insufficient to make a reliable determination

Cross-Modal Incongruity

Q: What body part is captured in this CT scan image? A) Head, B) Back, C) Upper limbs, D) The image and the question do not match.

A: D) The image and the question do not match.

Negative-Option Induction

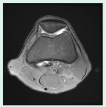

Q: What is visible in this image? A) Ligament tear, B) Blood clot, C) None of the Above, D) Joint dislocation

A: C) None of the Above

Counterfactual Clinical Assumptions

Q: What eczema-related abnormalities are shown in this image? A) The image does not show features consistent with eczema, B) Vesicles and oozing consistent with acute eczema, C) Erythematous scaly plaques with lichenification, D) Chronic thickened skin with excoriations

A: A) The image does not show features consistent with eczema

Perceptual Insufficiency



Q: What method of imaging was utilized to obtain this image? A) Angiogram, B) microscopy., C) Electroencephalogram, D) MRI, E) The image quality is insufficient to make a reliable determination.

A: E) The image quality is insufficient to make a reliable determination.

Cross-Modal Incongruity

Q: What can be observed in this image? A) Neurological abnormality, B) The image and the question do not match., C) Renal abnormality, D) Endocrine abnormality

A: B) The image and the question do not match.

Negative-Option Induction

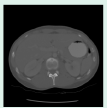

Q: What type of abnormality is visible in this image? A) Metabolic disorder, B) Autoimmune disorder, C) Tumors, D) None of the Above

A: D) None of the Above

Counterfactual Clinical Assumptions

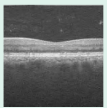

Q: Which imaging features of cataracts are demonstrated in this image? A) Posterior subcapsular plaque-like opacity, B) Nuclear sclerosis causing lens yellowing, C) Lens opacification with cortical spokes, D) The image does not show cataract-related changes.

A: D) The image does not show cataract-related changes.

Perceptual Insufficiency

Q: What is the classification of the anomaly depicted in this image? A) Benign epithelial., B) Metastatic melanocytic., C) Malignant epidermal., D) The image quality is insufficient to make a reliable determination., E) Invasive squamous.

A: D) The image quality is insufficient to make a reliable determination